Push Tasks

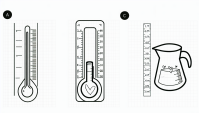

1. Read this thermometer to the nearest 2. The reading is about 16. Give a range.

2. Read this ruler with smear to the nearest 0.5. The reading is about 4.3. Give a range.

3. Read this measuring jug to the nearest 20. The reading is about 380. Give a range.

4. Read this dial scale to the nearest 10. The reading is about 220. Give a range.

5. Read this speedometer to the nearest 4. The reading is about 68. Give a range.

6. Read this protractor to the nearest 2. The reading is about 73. Give a range.

7. Read this barometer to the nearest 5. The reading is about 1008. Give a range.

8. Read this spring scale to the nearest 0.5. The reading is about 1.2. Give a range.

9. Read this thermometer to the nearest 2. The reading is about 16. Give a range.

Push Tasks

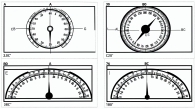

10. Read this ruler with smear to the nearest 0.5. The reading is about 4.3. Give a range.

11. Read this measuring jug to the nearest 20. The reading is about 380. Give a range.

12. Read this dial scale to the nearest 10. The reading is about 220. Give a range.

13. Read this speedometer to the nearest 4. The reading is about 68. Give a range.

14. Read this protractor to the nearest 2. The reading is about 73. Give a range.

15. Read this barometer to the nearest 5. The reading is about 1008. Give a range.

16. Read this spring scale to the nearest 0.5. The reading is about 1.2. Give a range.

17. Read this thermometer to the nearest 2. The reading is about 16. Give a range.

18. Read this ruler with smear to the nearest 0.5. The reading is about 4.3. Give a range.

Push Tasks

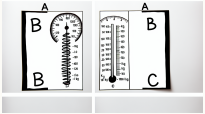

19. Read this measuring jug to the nearest 20. The reading is about 380. Give a range.

20. Read this dial scale to the nearest 10. The reading is about 220. Give a range.

21. Read this speedometer to the nearest 4. The reading is about 68. Give a range.

22. Read this protractor to the nearest 2. The reading is about 73. Give a range.

23. Read this barometer to the nearest 5. The reading is about 1008. Give a range.

24. Read this spring scale to the nearest 0.5. The reading is about 1.2. Give a range.

25. Read this thermometer to the nearest 2. The reading is about 16. Give a range.

26. Read this ruler with smear to the nearest 0.5. The reading is about 4.3.

27. Read this measuring jug to the nearest 20. The reading is about 280. Give a range.