Start Tasks

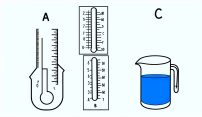

1. Read the thermometer. What value does it show?

2. Read the ruler. What value does it show?

3. Read the jug. What value does it show?

4. Read the dial scale. What value does it show?

5. Read the speedometer. What value does it show?

6. Read the protractor. What value does it show?

7. Read the pressure gauge. What value does it show?

8. Read the kitchen scale. What value does it show?

9. Read the thermometer. What value does it show?

Start Tasks

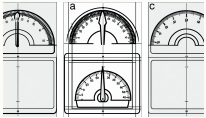

10. Read the ruler. What value does it show?

11. Read the jug. What value does it show?

12. Read the dial scale. What value does it show?

13. Read the speedometer. What value does it show?

14. Read the protractor. What value does it show?

15. Read the pressure gauge. What value does it show?

16. Read the kitchen scale. What value does it show?

17. Read the thermometer. What value does it show?

18. Read the ruler. What value does it show?

Start Tasks

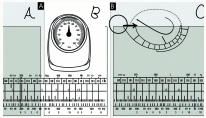

19. Read the jug. What value does it show?

20. Read the dial scale. What value does it show?

21. Read the speedometer. What value does it show?

22. Read the protractor. What value does it show?

23. Read the pressure gauge. What value does it show?

24. Read the kitchen scale. What value does it show?

25. Read the thermometer. What value does it show?

26. Read the ruler. What value does it show?

27. Read the jug. What value does it show?